ELEVATE KENYA PREDICTIONS
THE KENYA NATIONAL EXAMINATIONS COUNCIL
KENYA JUNIOR SCHOOL EDUCATION ASSESSMENT (KJSEA)

CREATIVE ARTS AND SPORTS

Time: 2 hours 15 minutes

Candidate's Name:	
Assessment Number:	**Date:**
School Name:	**School Code:**

SECTION A (40 MARKS)

Carefully read each descriptive scenario and circle the letter representing the most appropriate response.

PART I: SPORTS

1. **Analyze the movement below:**

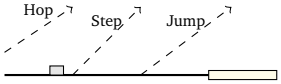

During an official triple jump competition, an official raises a red flag immediately after a learner completes their landing. Based on the technical rules of the event, which of the following landing or take-off errors most likely resulted in this jump being declared a foul?

A. The athlete's foot touched the ground beyond the take-off line.
B. The athlete achieved too much height during the 'step' phase.
C. The final landing was made completely within the sand pit area.
D. The athlete used a double-arm swing during the flight.

2. In a high-intensity rugby match, Mateka needs to execute a quick distribution to a teammate. He holds the ball vertically at the lower end with both hands to ensure a fast, short-range release. Which specific passing technique is he demonstrating?

A. Flick pass
B. Frisk pass
C. Pop pass
D. Spin pass

3. **Handball Court Restrictions:**

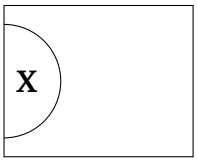

The diagram above highlights a specific zone labeled **X** near the goal area. In a standard game of handball, what is the primary rule regarding the movement of players within this semi-circular area?

A. Only the goalkeeper is allowed to stand or move inside this area.
B. Outfield players can stay for a maximum of five seconds.
C. Any defender can enter the area to block a goal-bound shot.
D. It serves as a neutral zone where no physical contact is allowed.

4. During a basketball training session, a Grade 9 learner is instructed to deliver a pass that is powerful, accurate, and travels in a straight line at chest level to a teammate only three meters away. Which skill is most effective here?

A. Chest pass
B. Overhead pass
C. Shoulder pass

D. Side pass

5. **Sprint Starting Blocks:**



In the 'medium start' configuration for sprints, the spacing of the pedals is critical for explosive power. If the pedals are placed too close together as shown, what specific adjustment must the athlete make to meet the 'medium start' requirements?

   A. Increase the distance between the front and rear blocks.
   B. Change the angle of the spikes on the track surface.
   C. Keep the hands wider than the shoulders on the track.
   D. Move the starting blocks closer to the finish line.

6. Mambo has consistently shown exceptional talent in football during school games. Which of the following represents the most sustainable way his parents can support his long-term career growth in the sport?

   A. Enroll him in a registered sports academy for professional coaching.
   B. Provide him with extra high-calorie snacks after every practice.
   C. Allow him to skip all academic classes to focus on training.
   D. Purchase the most expensive designer boots available on the market.

7. When performing the butterfly stroke in a swimming competition, the swimmer executes a specific 'S-pull' motion with their arms underwater. What is the primary mechanical purpose of this S-shaped movement?

   A. To maximize propulsion by pushing against still water.
   B. To significantly reduce the swimmer's heart rate during the lap.
   C. To allow the swimmer to see the bottom of the pool clearly.
   D. To ensure the legs stay perfectly still during the stroke.

8. During a netball match, the umpire blows the whistle and signals 'Obstruction' against a defender who is guarding the goal shooter. Under which condition is this penalty usually awarded?

   A. The defender is less than 0.9m (3ft) from the player with the ball.
   B. The defender ran across the court while holding the ball.
   C. The shooter failed to release the ball within three seconds.
   D. The ball touched the umpire during a transition play.

9. Safety is paramount in aquatic environments. Which of the following is considered a mandatory safety procedure before any learner is allowed to jump into a public swimming pool?

   A. Checking the depth markers to ensure the water is deep enough.
   B. Ensuring they are swimming alone to avoid collisions at night.
   C. Wearing heavy clothing to stay warm while in the water.
   D. Eating a very large meal immediately before entering the pool.

10. In a 4x100m relay race, the outgoing runner does not look back at the incoming runner when receiving the baton. What is the tactical advantage of using this 'non-visual' exchange method?

   A. It allows the team to maintain maximum sprinting speed.
   B. It prevents the runners from accidentally falling over the lines.
   C. It makes it easier for the officials to see the baton clearly.
   D. It reduces the physical distance the runners have to cover.

11. A handball goalkeeper has unique privileges compared to outfield players. At what point in the game is the goalkeeper permitted to touch the ball with their feet or any other part of their body?

    A. Only when they are positioned inside their own goal area.
    B. Whenever they move outside the 6m line to join the attack.
    C. During the execution of a penalty throw by the opposing team.
    D. When the ball is in the opponent's half of the court.

12. For an endurance runner competing in a 3000m race, which of the following food groups should be prioritized in a meal consumed two hours before the event to provide sustained energy?

    A. High-fat dairy
    B. Lean proteins
    C. Complex carbohydrates
    D. Sugary carbonated drinks

13. The 'Fosbury Flop' revolutionized the high jump event. When an athlete uses this technique to clear the bar, which part of their body is designed to make first contact with the landing mat?

    A. The soles of the feet
    B. The palms of the hands
    C. The upper back and shoulders
    D. The knees and shins

PART II: PERFORMING ARTS

14. **Musical Notation:**

Observe the note placed on the second line of the treble staff above. Identify the correct pitch name and the rhythmic duration (value) of this note.

    A. Pitch G with a Crotchet value.
    B. Pitch G with a Semibreve value.
    C. Pitch B with a Minim value.
    D. Pitch E with a Quaver value.

15. Every scripted story or play requires a specific context that informs the audience about the period and the physical location where the action occurs. This element is known as the:

    A. Plot
    B. Setting
    C. Theme
    D. Conflict

16. A music conductor uses hand gestures to indicate 'Dynamics' to the choir. Which of the following best describes what the choir should change in their singing?

    A. The volume (loudness or softness).
    B. The tempo (speed of the music).
    C. The language of the song lyrics.
    D. The arrangement of the singers on stage.

17. In African traditional folk dances, performers often wear specific beads, feathers, or skins known as 'adornments'. What is the primary cultural purpose of these items?

    A. To communicate cultural identity and status.
    B. To add weight to the dancer for better balance.
    C. To hide the facial expressions of the performers.
    D. To ensure the dancer remains warm during the night.

18. When a composer writes a short musical phrase and then repeats that same phrase at a higher or lower pitch level, they are using a melodic device called a:

    A. Sequence

B. Chorus

C. Verse

D. Rest

19. During a dramatic performance, a character stands alone on stage and speaks their innermost thoughts out loud so the audience can hear them. This theatrical device is a:

A. Soliloquy

B. Dialogue

C. Prologue

D. Epilogue

20. If a piece of music is written in a 3/4 time signature, what does this tell the performer about the rhythmic structure of each bar?

A. There are three crotchet beats in every bar.

B. There are four beats, each lasting for three seconds.

C. The music must be played as fast as possible.

D. Every third note must be played silently.

21. Musical instruments are classified based on how they produce sound. Which of the following is categorized as a percussion instrument?

A. Flute

B. Violin

C. Marimba

D. Trumpet

22. When analyzing the relationship between two different musical notes, the vertical distance in pitch between them is referred to as a/an:

A. Rhythm

B. Interval

C. Scale

D. Chord

23. To maintain the longevity and sound quality of a plastic or wooden recorder, what is the most appropriate cleaning action to take after a practice session?

A. Dry the internal bore with a soft lint-free cloth.

B. Soak it in boiling water for ten minutes to disinfect.

C. Apply a thick layer of oil to the finger holes.

D. Leave it in direct sunlight to dry quickly.

24. A group of students is asked to compose a song that expresses loyalty, love, and pride for their nation. This type of composition is best classified as a:

A. Lullaby

B. Patriotic song

C. Dirge

D. Sacred song

PART III: VISUAL ARTS

25. **Principles of Design:**

Observe the visual arrangement in the artwork above. Since the elements radiate outward from a central focal point, what type of balance is being utilized?

A. Linear

B. Radial

C. Symmetrical

D. Asymmetrical

26. **Stages of Art Production:**

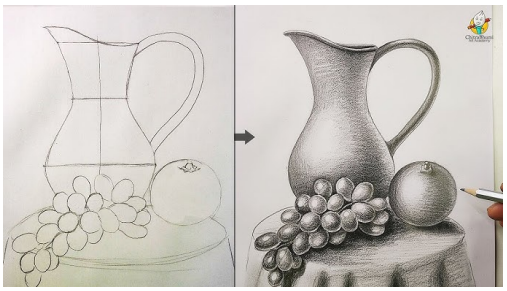

The illustration above shows the progression of a still-life study from basic outlines to a finished piece. Which two distinct stages are represented here?

A. Sketching and shading.
B. Sketching and drawing.
C. Painting and carving.
D. Weaving and stitching.

27. **Pattern Design:**



The ornament shown above uses a motif that repeats in a predictable, alternating sequence. Identify the specific pattern arrangement used.

A. Full repeat
B. Regular repeat
C. Alternate repeat
D. Random repeat

28. **Traditional Crafts:**

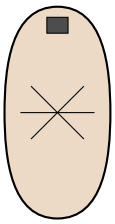

Gourds are often decorated for functional or aesthetic purposes in Kenya. Looking at the fine lines and colored sections on this gourd, which techniques were most likely used?

A. Engraving and painting.
B. Casting and burning.
C. Welding and soldering.
D. Knitting and crocheting.

29. **Color Theory in Nature:**

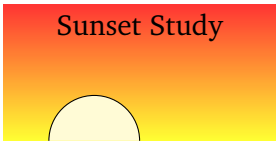

In a painting of a sunset featuring closely related colors like red, orange, and yellow, which type of color harmony is the artist primarily using?

A. Complementary
B. Analogous
C. Monochromatic
D. Achromatic

30. When an artist mixes two primary colors (such as Red and Yellow) in equal proportions on a palette, the resulting color is classified as a:

A. Secondary color
B. Neutral color
C. Tertiary color
D. Primary color

31. In a Creative Arts class, learners are encouraged to maintain a 'Portfolio'. What is the most important professional use of this collection of work?

A. To store, organize, and display a learner's progress over time.
B. To provide a waterproof container for cleaning used brushes.
C. To serve as a surface for mixing heavy oil paints.
D. To provide extra weight for paper during outdoor sketching.

32. Which of the following is a primary color?

A. Green
B. Orange
C. Blue
D. Purple

33. In volleyball, the act of jumping at the net to stop an opponent's hit is known as:

A. Spiking

B. Blocking
C. Serving
D. Digging

34. A 'monologue' in a drama performance involves which of the following?
    A. Two actors speaking to each other.
    B. One actor speaking alone.
    C. A choir singing in harmony.
    D. The audience voting on a winner.

35. The texture of a surface in visual art refers to which of the following?
    A. How it looks or feels
    B. How much it costs
    C. How heavy it is
    D. The date it was made

36. In football, a 'corner kick' is awarded when which of the following happens?
    A. The ball crosses the touchline.
    B. The defending team knocks the ball over their own goal line.
    C. A player uses their hands to stop the ball.
    D. The referee ends the first half of the match.

37. Which musical symbol increases a note's value by half of its original duration?
    A. Flat
    B. Sharp
    C. Dot
    D. Natural

38. The 'crouch start' (using blocks) is mandatory for which of the following races?
    A. 1500m race
    B. Marathon
    C. 100m sprint
    D. 5000m walk

39. 'Value' in visual arts refers to which of the following?
    A. The market price of the artwork
    B. The lightness or darkness of a color
    C. The size of the canvas used
    D. The reputation of the artist

40. Which of the following is an example of a woodwind instrument?
    A. Drum
    B. Piano
    C. Flute
    D. Cymbals

SECTION B (60 MARKS)

PART I: PERFORMING ARTS (20 Marks)

41. **Scale Construction:** On the treble staff provided below, use **semi-breves** to write the ascending scale of **F major**. Note: Do not use a key signature; instead, place the appropriate accidental (*flat or sharp*) on the correct note to maintain the major scale structure. (4 marks)



42. **Melodic Composition:** Complete the melody started below by adding a **two-bar answering phrase**. Ensure your response follows the 4/4 time signature and ends on the tonic (home) note to provide a sense of finality. (4 marks)



43. **Music in Sports and Dance:**

    (a) In the context of a high-stakes football match, analyze and outline **three distinct roles** that music (from fans or loudspeakers) plays in influencing the atmosphere and the players' performance. (3 marks)
    1. _____
    2. _____
    3. _____

    (b) During a traditional dance, the soloist is often given the "freedom of performance." Identify **two specific ways** in which a soloist exercises this creative freedom to make the performance unique. (2 marks)
    1. _____
    2. _____

44. **Drama and Performance Preparation:**

    (a) When developing the plot of a story for a play, describe **three essential aspects** that must be clearly established in the *exposition* (beginning) to ensure the audience understands the conflict. (3 marks)
    .....
    .....
    .....

    (b) Explain in detail **three reasons** why it is professionally necessary for actors to engage in thorough **vocal and physical warm-up** routines before they take the stage for a performance. (4 marks)
    .....
    .....
    .....

PART II: SPORTS (20 Marks)

45. **Physical Fitness:** Strength is a critical component for most sports. Identify and describe **four specific training activities** or exercises that a Grade 9 learner can use to safely develop upper and lower body strength. (4 marks)
    1. _____ 2. _____
    3. _____ 4. _____

46. **Athletics Technique:** The Triple Jump is divided into three distinct phases. Describe the correct technical execution for the following phases: (4 marks)
    (a) The Approach Run: (Focus on speed and rhythm) _____
    (b) The Take-off: (The transition from run to the 'Hop') _____

47. **Netball Tactics:**
    (a) Provide a descriptive definition of the term **'marking'** as it is strategically applied by a defender in a game of netball. (2 marks)
    .....
    (b) Outline **three effective strategies** that a defender should employ to ensure they mark their opponent successfully without committing an obstruction foul. (3 marks)
    1. _____
    2. _____
    3. _____

48. **Swimming Techniques:**
    (a) Describe the coordinated arm and leg movements required to perform the **butterfly stroke** efficiently. (2 marks)
    .....
    (b) Discuss **three common technical challenges** that learners often face when trying to master the timing and breathing of the butterfly style. (5 marks)
    .....
    .....

PART III: VISUAL ARTS (20 Marks)

49. **Indigenous Culture:**
    (a) Identify one **indigenous board game** (e.g., Ajua/Bao) that is traditionally played in Kenya. (1 mark)
    _____
    (b) Highlight **two significant social or cognitive benefits** that learners gain from participating in these traditional board games. (2 marks)
    1. _____
    2. _____

50. **Fabric Decoration:** Imagine Viron is creating a mat using the **coil technique** with old fabric strips. Outline the **four major steps** he must follow, from preparation to the final stitching

of the coils. (4 marks)

Step 1: _____ Step 2: _____

Step 3: _____ Step 4: _____

51. **Printmaking:** When using a **paper stencil** to print a repeating pattern on fabric, describe the **four technical steps** involved in preparing the stencil itself before the ink is applied. (4 marks)

Step 1: _____ Step 2: _____

Step 3: _____ Step 4: _____

52. **Artistic Analysis:**



Analyze the silhouette painting above based on the following criteria: (9 marks)

(a) Propose a suitable title: .....

(b) Identify the forms/shapes present: .....

(c) Describe the use of color harmony: .....

(d) Evaluate the use of space (Foreground/Background): .....

— END OF ASSESSMENT —